Physics 5C Discussion (Week 4)

Department of Physics and Astronomy, UCLA

Problem 1: We have seen this problem and its calculation using electric field and electric forces, now we will work through it using electric potential and energy. In this problem, neglect friction and gravity.

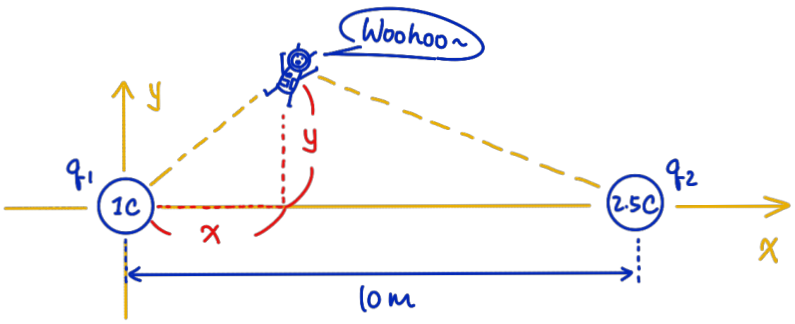

Charge $q_2 = 2.5\,\mathrm{C}$ is fixed at $\vec{x}_2 = (10, 0)\,\mathrm{m}$;
Charge $q_1 = 1\,\mathrm{C}$ is fixed at $\vec{x}_1 = (0, 0)\,\mathrm{m}$;
The Coulomb constant $k = 8.99 \cdot 10^9\,\mathrm{Nm}^2/\mathrm{C}^2$, and the mass of electron is $9.11 \cdot 10^{-31}\,\mathrm{kg}$.

Part (a): Draw a few equipotential lines around the two charges and in the region between the two charges. How does equipotential lines compare to electric field lines?

Part (b): Find the electric potential in this configuration at a point point $\vec{x} = (x, y)$ "between" the two charges. That is, you can assume $0 < x < 10$ meters, but allow arbitrary value for y.

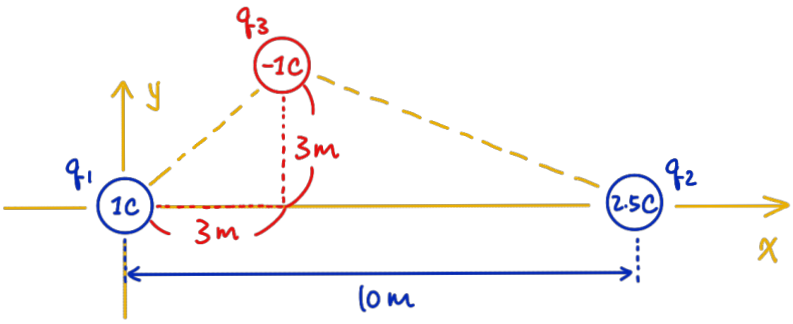

Now we place another charge $q_3 = -1\,\mathrm{C}$ at $\vec{x}_i = (3, 3)\,\mathrm{m}$.

Part (c): Find the amount of work needed to move q_3 from $\vec{x}_i = (3, 3)$ to $\vec{x}_f = (3, 0)\,\mathrm{m}$.

Part (d): Find the amount of work needed to move q_3 from $\vec{x}_i = (3, 3)$ to $\vec{x}_f = (3, -3)\,\mathrm{m}$.

Problem 2: [The computation in this problem should be very very easy.]
Suppose in a 2-dimensional region we have an electric potential $V(x) = x + 10$ (with unit Volts). That is, the electric potential depends only on the x-coordinate of the location, and does not depend on the y-coordinate. [1]

Part (a): Draw in the coordinate system a few equipotential lines, and label their potential. Then draw the electric field lines based on the equipotential lines.

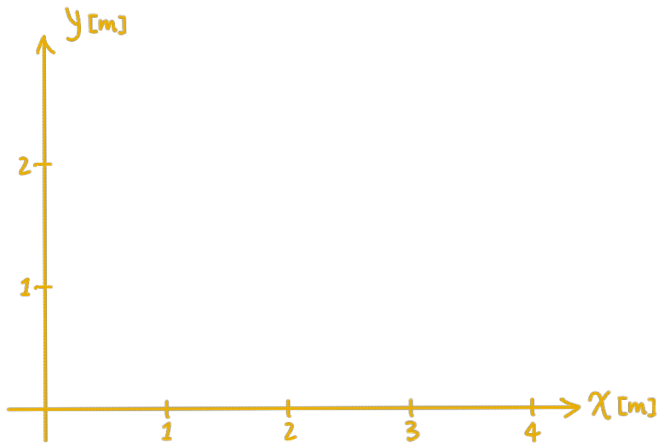

Part (b): Find the electric field in its vector form $\vec{E} = (E_x,\, E_y)$ at $\vec{x}_1 = (1, 0)\,\mathrm{m}$.

Part (c): Find the electric field in its vector form $\vec{E} = (E_x,\, E_y)$ at $\vec{x}_2 = (3, 3)\,\mathrm{m}$.

Part (d): If the electric potential is $V(x) = x + 233333$ instead, find the electric field at position $\vec{x}_1 = (1, 0)\,\mathrm{m}$ and at position $\vec{x}_2 = (3, 3)\,\mathrm{m}$.

[1] The unit for x is meter. If the unit for $V(x) = \alpha x + \beta$ is V, then the unit for the constant α is V/m and the unit for the constant β is V. Therefore, in this problem, $\alpha = 1\,\mathrm{V/m}$ and $\beta = 10\,\mathrm{V}$.

Problem 1

It is unclear how we can draw the equipotential lines in this configuration, but we know the relation between electric field lines and equipotential lines - electric field lines are always perpendicular to the equipotential lines - so we can use this fact to draw the equipotential lines.

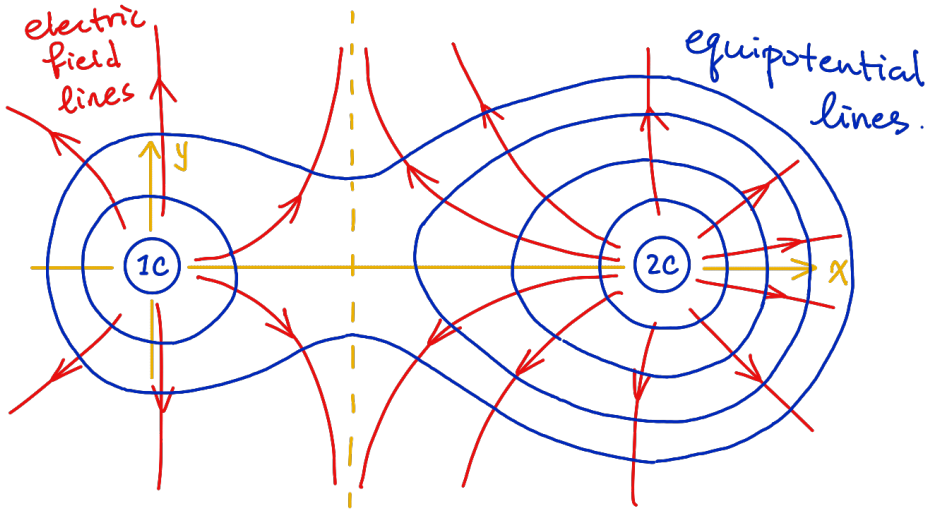

Notice at all points where the blue lines (electric field lines) intersect with the read lines (equipotential lines), the two are perpendicular to each other. The blue lines on the right is denser than the blue lines on the left, and this is because the charge on the right is "larger" than the charge on the left. The equipotential lines form a "contour map," like the top view of two mountains, with the one on the right slightly larger than the one on the left.

At a point $\vec{x}$ between the two charges, we can first find the electric potential V_1 at $\vec{x}$ due to q_1 on the left, then find the electric potential V_2 at $\vec{x}$ due to q_2 on the right, and sum the two to get the total potential at $\vec{x}$. Here V_1 is first computed,

$$V_1 = \frac{kq_1}{r_1},$$

where $r_1 = \sqrt{(x-0)^2 + (y-0)^2} = \sqrt{x^2+y^2}$ is the distance between the point $\vec{x}$ and the charge q_1 located at the origin. Therefore, we can write

$$V_1 = \frac{kq_1}{\sqrt{x^2+y^2}}.$$

Caution: Electric potential is a scalar, so it does not have x- or y-component. There is no sin **or** cos **that you need to consider here**. Similarly, for V_2, we have

$$V_2 = \frac{kq_2}{r_2},$$

where $r_2 = \sqrt{(10-x)^2 + (y-0)^2} = \sqrt{(10-x)^2+y^2}$ is the distance between the point $\vec{x}$ and the charge q_2 located at $(10, 0)$ m. Therefore, summing the two, we have

$$V = V_1 + V_2 = \frac{kq_1}{\sqrt{x^2+y^2}} + \frac{kq_2}{\sqrt{(10-x)^2+y^2}} = \frac{8.99 \cdot 10^9}{\sqrt{x^2+y^2}} + \frac{22.48 \cdot 10^9}{\sqrt{(10-x)^2+y^2}}.$$

The unit for V is Volt.

Now if I put another charge q_3 into this region, from week-3 discussion worksheet, we know that q_3 will have electric potential energy

$$U = q_3 V = (-1) \cdot \left(\frac{8.99 \cdot 10^9}{\sqrt{x^2 + y^2}} + \frac{22.48 \cdot 10^9}{\sqrt{(10-x)^2 + y^2}} \right) . \qquad (*)$$

I need to plug in $x = 3$ and $y = 3$ to evaluate this potential energy at position $\vec{x}_i = (3, 3)\,\mathrm{m}$, the place where q_3 is initially placed. Therefore, at $\vec{x}_i = (3, 3)\,\mathrm{m}$,

$$U_i = -\frac{8.99 \cdot 10^9}{\sqrt{3^2 + 3^2}} - \frac{22.48 \cdot 10^9}{\sqrt{(10-3)^2 + 3^2}} = -5.07 \cdot 10^9\,\mathrm{J}$$

Since I want to move q_3 to another position $\vec{x}_f = (3, 0)\,\mathrm{m}$, we also find the electric potential energy of q_3 at $\vec{x}_f = (3, 0)\,\mathrm{m}$ using Eq. (*).

$$U_f = -\frac{8.99 \cdot 10^9}{\sqrt{3^2 + 0^2}} - \frac{22.48 \cdot 10^9}{\sqrt{(10-3)^2 + 0^2}} = -6.21 \cdot 10^9\,\mathrm{J}\,.$$

Due to energy conservation,

$$\mathrm{KE}_i + U_i + (\text{External Work}) = \mathrm{KE}_f + U_f\,,$$

with initial and final energy being zero, the amount of energy that we need to spend to move q_3 from the initial position $\vec{x}_i$ to the final position $\vec{x}_f$, which is exactly the "external" work done to q_3, is just the potential energy difference at the two points. That is,

$$\text{External Work} = U_f - U_i == -6.21 \cdot 10^9 - (-5.07 \cdot 10^9) = -1.14 \cdot 10^9\,\mathrm{J}\,.$$

This is the final answer for part (c). The reason that we need to spend negative work to move q_3 from the initial position to the final position is because the electric force acting on q_3 (due to q_1 and q_2) at $\vec{x}_i = (3, 3)\,\mathrm{m}$ is already helping us to pull q_3 down towards $\vec{x}_f = (3, 0)\,\mathrm{m}$. We only need to prevent q_3 from moving further down when it reach $\vec{x}_f = (3, 0)\,\mathrm{m}$, so we only need to apply a force upwards on q_3 to stop its motion, and that force is anti-aligned with with the displacement of the charge (moving downwards). Since

$$W = \vec{F} \cdot \Delta\vec{x}\,,$$

if $\vec{F}$ points in a direction opposite to $\Delta\vec{x}$, the work W is negative.

Now we repeat our calculation for moving q_3 from $\vec{x}_i = (3, 3)$ to $\vec{x}_f = (3, -3)$. At the final position $\vec{x}_f = (3, -3)\,\mathrm{m}$, using Eq. (*) again, we have

$$U_f = -\frac{8.99 \cdot 10^9}{\sqrt{3^2 + (-3)^2}} - \frac{22.48 \cdot 10^9}{\sqrt{(10-3)^2 + (-3)^2}} = -5.07 \cdot 10^9\,\mathrm{J}\,.$$

We notice that U_i is exactly the same as U_f (with U_i computed above at $\vec{x}_i = (3, 3)\,\mathrm{m}$). Therefore, we conclude that

$$\text{External Work} = U_f - U_i = 0\,\mathrm{J}\,.$$

This indicates that $\vec{x}_i = (3, 3)\,\mathrm{m}$ and $\vec{x}_f = (3, -3)\,\mathrm{m}$ are on the same equipotential line, as they have the same potential due to q_1 and q_2, such that q_3 has the same electric potential energy at the two points. **It is a fact that, if friction is neglected, it takes zero work for moving a test charge from one point on an equipotential line to another point on the same equipotential line.** There is another point of view that we can understand this: It takes negative amount of work W_1 to move q_3 from $(3, 3)\,\mathrm{m}$ to $(3, 0)\,\mathrm{m}$ because the electric force on q_3 is helping us, but it takes positive amount of work W_2 to move q_3 from $(3, 0)\,\mathrm{m}$ to $(3, -3)\,\mathrm{m}$ because the electric force on q_3 is no-longer helping us. In fact, from $(3, 0)\,\mathrm{m}$ to $(3, -3)\,\mathrm{m}$, the electric force is "counter-helping" us. You can verify that the electric force is trying to pull q_3 upwards when q_3 travels from $(3, 0)\,\mathrm{m}$ to $(3, -3)\,\mathrm{m}$. Therefore, in the entire process, we have $W_1 + W_2 = 0$, the positive and the negative works cancel exactly.

Problem 2

Again, as in Problem 1, the electric field lines should be perpendicular to the equipotential lines. Along each equipotential line, we have the same electric potential. Since $V(x)$ depends only on x, the equipotential lines are vertical straight lines in the region. Therefore, the electric field lines are straight lines in the horizontal direction, pointing from large potential to small potential (because positive charge creates positive electric potential while negative charges create negative electric potential).

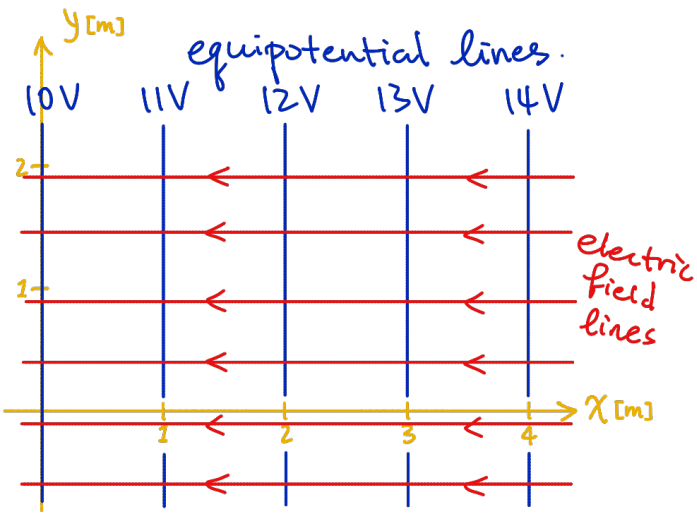

To find the electric field from the given potential $V(x) = x + 10$, we need to use the relation

$$E_x = -\frac{\Delta V}{\Delta x}\,, \qquad E_y = -\frac{\Delta V}{\Delta y}\,. \tag{†}$$

The "Δ" means the change in something. The calculus version of this statement is

$$\vec{E} = -\nabla V = \left(-\frac{\partial V}{\partial x}\,,\ -\frac{\partial V}{\partial y}\right)\,.$$

But I am not allowed to talk about calculus in this class so ... Let us stick with the non-calculus version, but then there is one key thing you need to know about the equations (†): **The statement $E_x = -\Delta V/\Delta x$ applies only to uniform electric field E_x and electric potential V that is linearly depend on x,** such as the one we have in this problem. Here "uniform" means that the quantity is the same everywhere in space.

First we want to find E_x, let's say we have $\Delta x = 1$ meter, then the change in $V(x)$ under the 1-meter change in x is 1 Volt, and this is true regardless of where we measure such a change. That is, near $\vec{x} = (1, 0)\,\mathrm{m}$, if we go from $x_i = 0.5\,\mathrm{m}$ to $x_f = 1.5\,\mathrm{m}$, we see that $V(x)$ changes from $0.5 + 10 = 10.5\,\mathrm{Volts}$ to $1.5 + 10 = 11.5\,\mathrm{Volts}$. Similarly, near $\vec{x} = (3, 3)\,\mathrm{m}$, if we go from $x_i = 2.5\,\mathrm{m}$ to $x_f = 3.5\,\mathrm{m}$, we see that $V(x)$ changes from $2.5 + 10 = 12.5\,\mathrm{Volts}$ to $3.5 + 10 = 13.5\,\mathrm{Volts}$. In both cases, $V(x)$ increases by 1 Volts. Now we conclude

$$E_x = -\frac{\Delta V}{\Delta x} = -1\,\mathrm{N/m}\,.$$

You can use the similar argument to find that

$$E_y = -\frac{\Delta V}{\Delta y} = 0\,\mathrm{N/m}\,,$$

but a more straightforward way to see this is from the fact that $V(x)$ does not depend on the y-position, so no matter how much you change your y-coordinate, the corresponding ΔV is zero, hence $E_y = 0\,\mathrm{N/m}$. This answers part (b) and (c) together,

$$\vec{E} = (-1, 0)\,\mathrm{N/m}$$

at either $\vec{x}_1 = (1, 0)\,\mathrm{m}$ or $\vec{x}_2 = (3, 3)\,\mathrm{m}$, as we just argued that such a unit change in V does not depend on where we measure it. In fact, the quantity $\Delta V/\Delta x$ is the slope of line $V(x)$, and therefore, $\vec{E}$ is sort of the negative "slope" of V (in higher-dimensional space, this is called the negative gradient of V). Also due to this, we see that only the coefficient in front of x in $V(x)$ matters, the $+10$ in $V(x) = x + 10$ does not matter at all. There is a special name for that constant term "+10" in Physics: It is called the gauge in $V(x)$. The statement is that changing the gauge in $V(x)$ does not change the electric field $\vec{E}$ at all.

In the argument above, we see that the constant term "+10" in the original $V(x)$ does not matter, then the electric fields at $\vec{x}_1$ and $\vec{x}_2$, even if we change to $V(x) = x + 233333$, stay the same as before,

$$\vec{E} = (-1,\ 0)\,\mathrm{N/m}\,.$$

This corresponds to a statement that you have learned in Physics 5A: The value of energy does not matter, only the energy difference between two points in space matters. That is, the statement here is that the **value of electric potential does not matter, but the electric potential difference at two different points does matter**, and we have used this exact statement in our calculation of Problem 1 Parts (c) and (d).

The photo of this week is metro lines in Guangzhou, China. :D